ANS

Answers

flower	stem	leaves	roots	seeds	petals

A plant's roots take up water and nutrients from the soil. They travel up the stem to the rest of the plant. The leaves use water, nutrients, and sunlight to make food for the plant. A flower has petals around it to attract pollinators. Inside, seeds grow to make new plants.

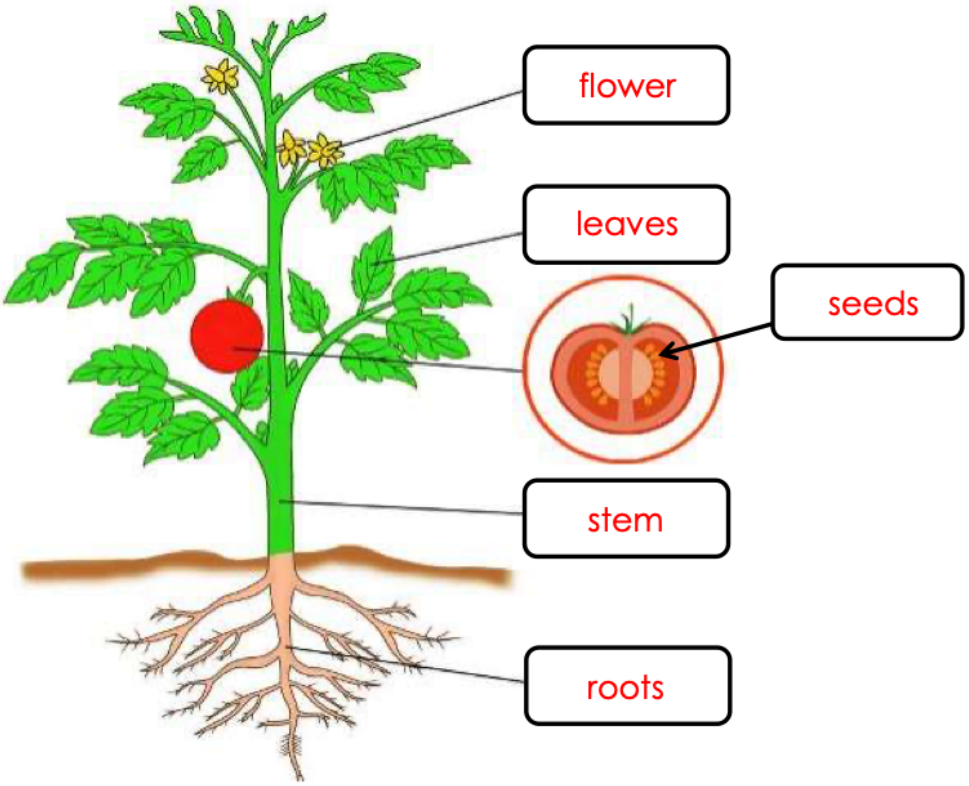

Answers

Write producer, consumer, or decomposer for each living thing.

1. grass
   producer

2. elephant
   consumer

3. bacteria
   decomposer

4. tiger
   consumer

5. acacia tree
   producer

6. earthworm
   decomposer

7. mushroom
   decomposer

8. blackberry plant
   producer

9. grizzly bear
   consumer

10. rattlesnake
    consumer

Answers

Weather Report		
Day	**Temperature High / Low**	**Conditions**
Monday	90° / 72°	Sunny
Tuesday	83° / 73°	Stormy
Wednesday	80° / 68°	Stormy
Thursday	84° / 76°	Partly Cloudy
Friday	87° / 73°	Sunny

Which day was the hottest? Monday

Which night was the coolest? Wednesday

On how many days was it stormy? Two days

How many degrees did the high temperature fall from Monday to Wednesday? 10°

Compare the weather on Tuesday and Friday. Which day would be better for an outdoor soccer game? Why?
Friday. Because it's a sunny day.

What do you think the weather might be like on Saturday? Why? Sunny. Because Friday was a sunny day too.

Answers

Label the layers in the structure of the Earth.

mantle	inner core	crust	outer core

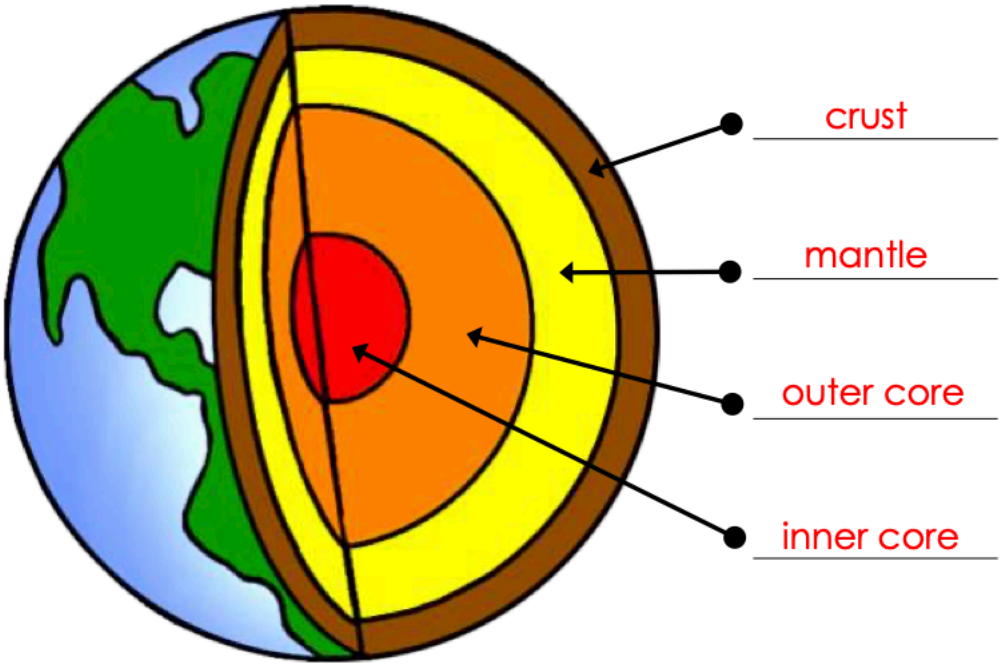

Answer the questions.

Which layer do we live on? crust

Which layer generates Earth's magnetic field? outer core

Which layer is the hottest? inner core

On which layer does the crust float? mantle

Try this: Put a pencil on a table.

Does it move? Why do you think this happens?

The pencil doesn't move when it is sitting on the table because the table is pushing up on the pencil with equal and opposite force. The forces are balanced, so the pencil doesn't move.

Try this: Gently push the pencil off the edge of the table.

What happens? Why do you think this happens?

Earth's gravity pulls on everything on Earth all the time. The pencil falls off the table because gravity is pulling on it.

Answers

For each pair of magnets, write **attract** or **repel**.

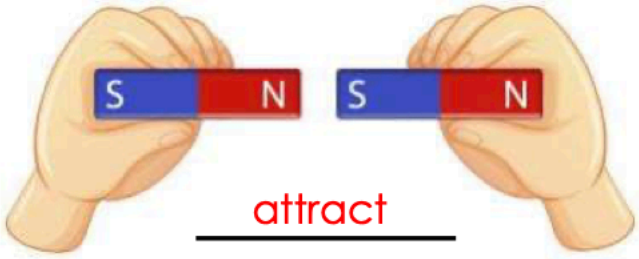

attract

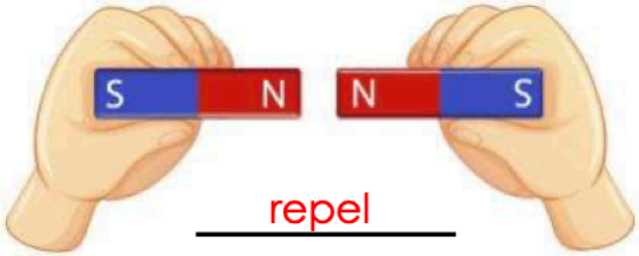

repel

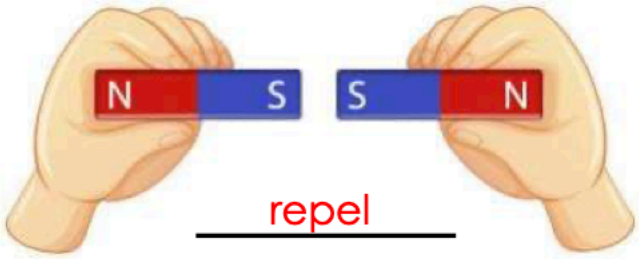

repel

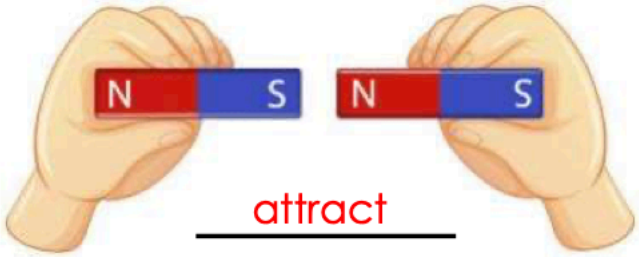

attract