Pre-test Science Grade 1

Name: _____

Date: _____

Circle the plants, draw a square around the animals and cross out non-living things.



Write numbers 1 to 5 to show the correct order of the plant's life cycle. Label each step.

sprout seed fruit flower plant



Draw and label the 4 stages in order (egg, caterpillar, pupa and butterfly).

1

2

3

4

Label the parts of the body below.

arm	hand	leg	foot
eye	mouth	ear	nose
neck	toes	fingers	head

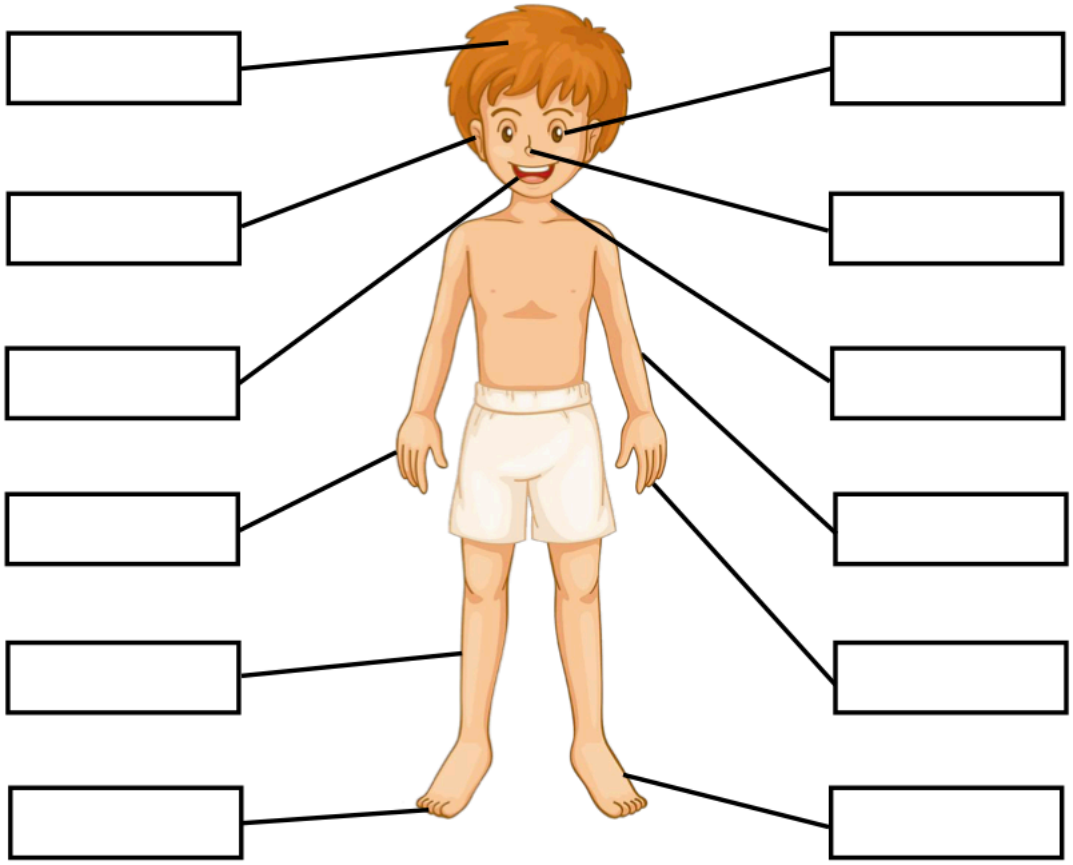

Match the weather and the words.

Stormy

Rainy

Sunny

Snowy

Cloudy

Windy

If an object gives off heat, draw arrows showing the heat.

One of these objects gives off both heat and light.

Circle it.

Circle the correct answer.

	push	pull
	push	pull
	push	pull
	push	pull
	push	pull

Is it easier to push or pull something with a rope?

_____