Pre-test Science Grade 3

Name: _____

Date: _____

flower	stem	leaves	roots	seeds	petals

A plant's _____ take up water and nutrients from the soil. They travel up the _____ to the rest of the plant. The _____ use water, nutrients, and sunlight to make food for the plant. A _____ has _____ around it to attract pollinators. Inside, _____ grow to make new plants.

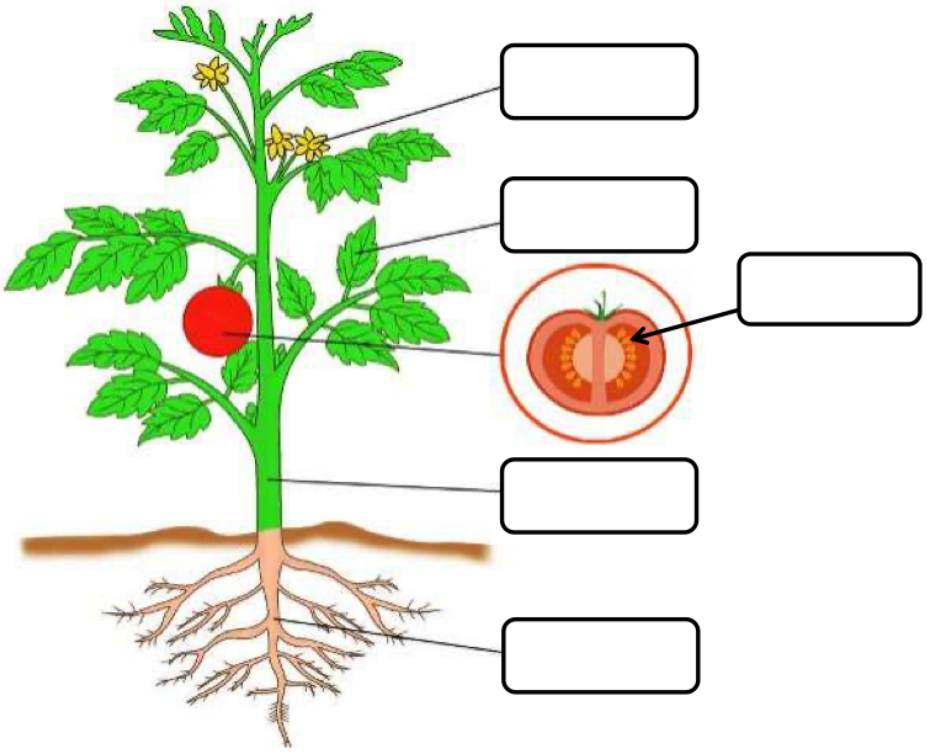

Write producer, consumer, or decomposer for each living thing.

1. grass _____

2. elephant _____

3. bacteria _____

4. tiger _____

5. acacia tree _____

6. earthworm _____

7. mushroom _____

8. blackberry plant _____

9. grizzly bear _____

10. rattlesnake _____

Weather Report		
Day	**Temperature High / Low**	**Conditions**
Monday	90° / 72°	Sunny
Tuesday	83° / 73°	Stormy
Wednesday	80° / 68°	Stormy
Thursday	84° / 76°	Partly Cloudy
Friday	87° / 73°	Sunny

Which day was the hottest? _____

Which night was the coolest? _____

On how many days was it stormy? _____

How many degrees did the high temperature fall from Monday to Wednesday? _____

Compare the weather on Tuesday and Friday. Which day would be better for an outdoor soccer game? Why?

_____

What do you think the weather might be like on Saturday? Why? _____

Label the layers in the structure of the Earth.

mantle	inner core	crust	outer core

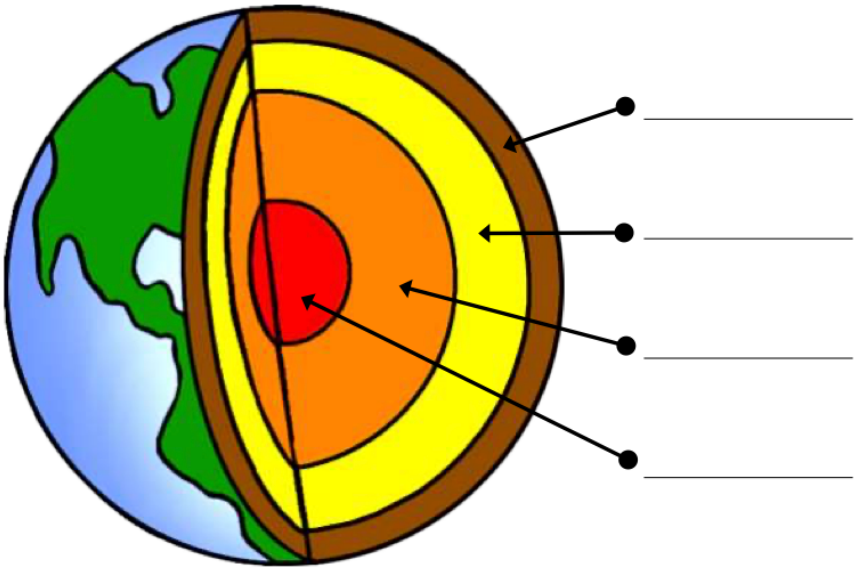

Answer the questions.

Which layer do we live on? _____

Which layer generates Earth's magnetic field? _____

Which layer is the hottest? _____

On which layer does the crust float? _____

Try this: Put a pencil on a table.

Does it move? Why do you think this happens?

Try this: Gently push the pencil off the edge of the table.

What happens? Why do you think this happens?

For each pair of magnets, write **attract** or **repel**.

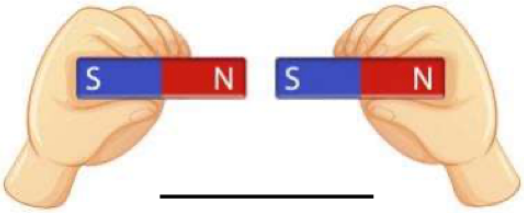

_____

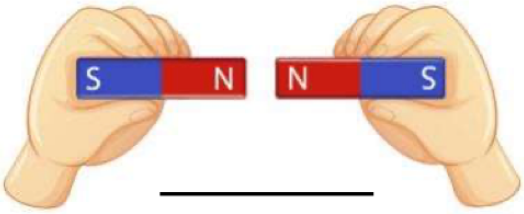

_____

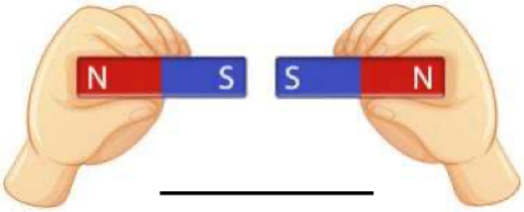

_____

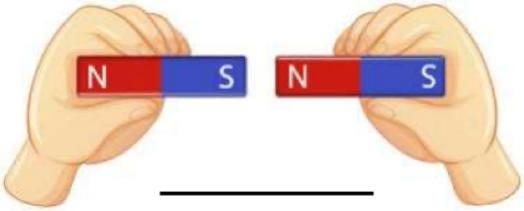

_____